Higher National Diploma in Quantity Survey

2nd Year, Second Semester Examination – 2018

QS22053 – Information Technology IIB (AutoCAD)

Instructions for Candidates:

Answer only **One** (**01**) questions	No. of questions	: 02
All questions carry equal marks	No. of pages	: 04
Save all files on desktop with your index number	Time	: **Two (02) hours**

1.

i. Create cross sections of the column as specified in the following diagram (size of the square is 12” by 12” and radius of the circle is 4”. The vertical distance between squares is 6”, the vertical distance between square and the circle is 6” and Vertical distance between circles is 96”. The total height of the column is 120”) (20 Marks)

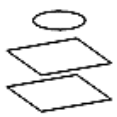

ii. Create the column using loft tool (20 Marks)

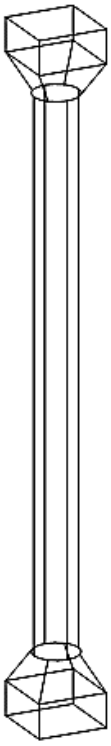

iii. Create 10 similar columns in a circular manner as specified below. The radius of circle is 120” (20 Marks)

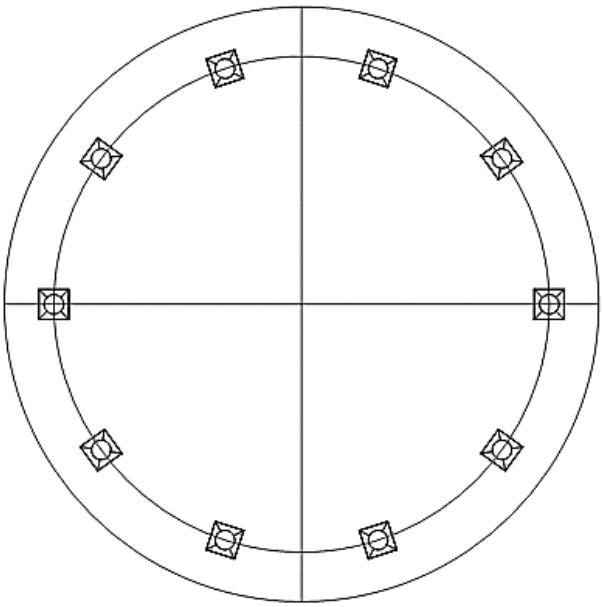

iv. Create a circle on the top of the columns with the radius of 144” and extrude the circle with the taper angle of 60 degree. You have to choose an appropriate height of extrusion to make the top of the roof as a cone. (25 Marks)

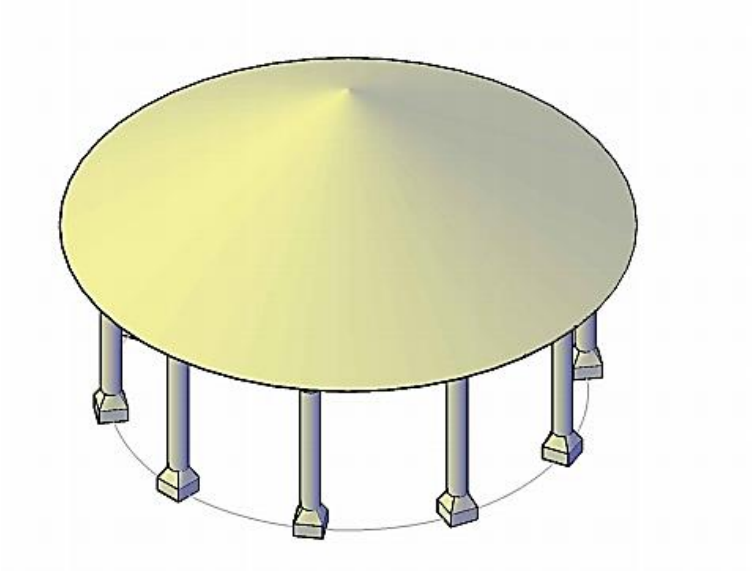

v. Type your index number at the top of the drawing and plot it using PDF plotter for A4 paper and save the both plotted PDF and source (.DWG) file using your index number on desktop. (15 Marks)

2.

i. Create the drawing shown in figure 1 using AutoCAD software by covering the following areas.

a. Draw the walls according to the given dimensions. (35 Marks)

b. Different layers for Walls, Dimensions, Doors, Windows and Text (20 Marks)

c. Hatch the Walls. (10 Marks)

d. Draw the doors and windows (25 Marks)

e. Type your index number at the top of the drawing and plot it using PDF plotter for A4 paper and save the both plotted PDF and source (.DWG) file using your index number on desktop. (10 Marks)

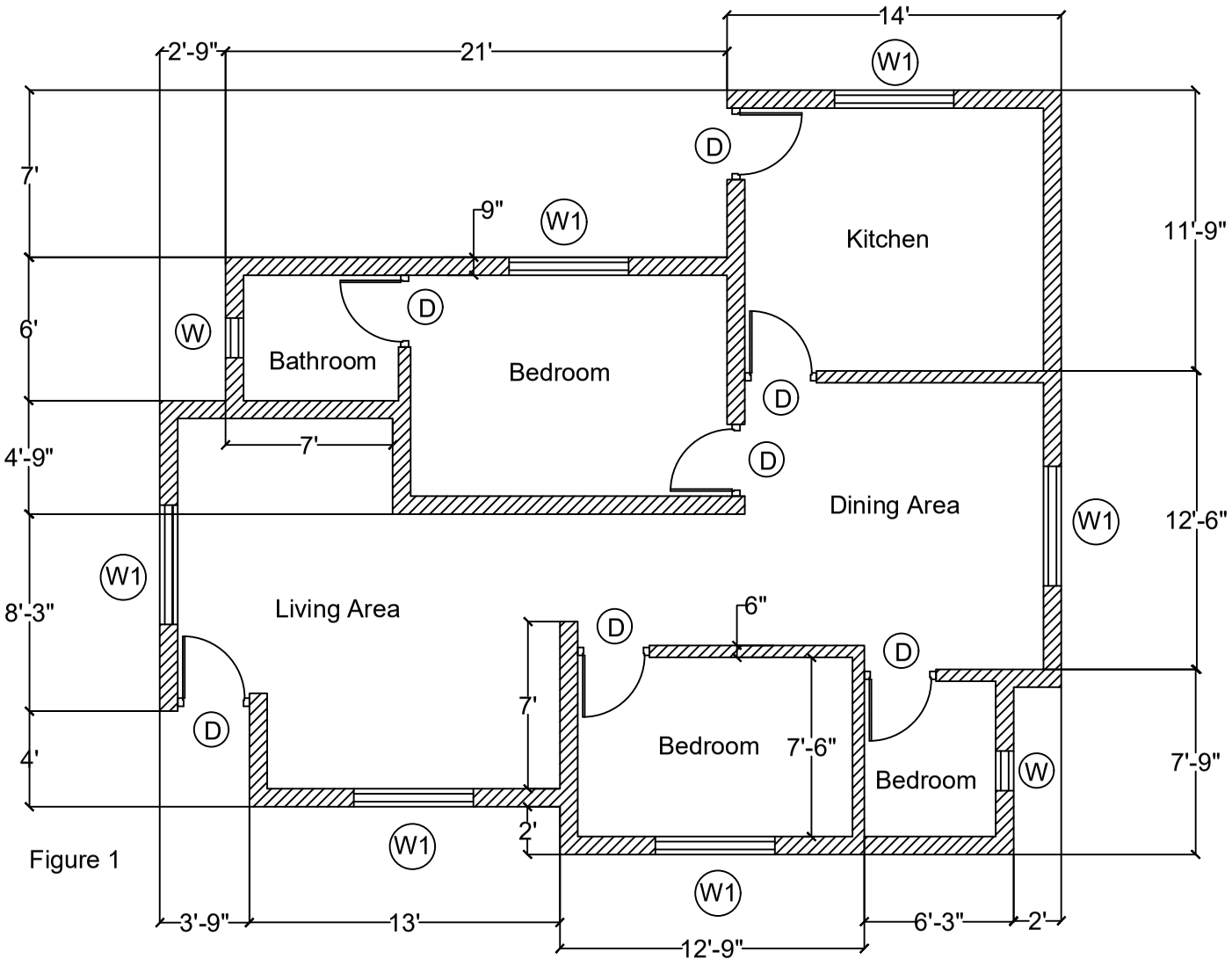

Figure 1

Specification of Doors and Windows		
Type	Size (with frame)	Description
D	36" x 72"	Door with 4" x 3" Frame
W1	60" x 60"	Window with 4" x 3" Frame
W	20" x 18"	Window with 4" x 3" Frame